Total candidates selecte[illegible] what percent of the total candidates selected from Gwalior?

www.youtube.com – To exit full screen, press Esc

(A) 125%

(B) 55.55%

(C) 225%

(D) 44.44%

(M1)

Jab is $x\%$ of Gwa

$$\text{Jab} = \frac{x}{100} \times \text{Gwa}$$

$$16\% \text{ of } 54000 = \frac{x}{100} \times 36\% \text{ of } 54000$$

$$\frac{16}{100} \times 54000 = \frac{x}{100} \times \frac{36}{100} \times 54000$$

$$\frac{16}{100} \times 54000 = \frac{x}{100} \times \frac{36}{100} \times 54000$$

$x\%$

$$x = \frac{16}{36} \times 100$$

$$= \frac{4}{9} \times 100$$

$$= \frac{400}{9} \Rightarrow$$

Data Interpretation

Total candidates selected from Jabalpur is what percent of the total candidates selected from Gwalior?

(A) 125%

(B) 55.55%

(C) 225%

(D) 44.44%

M2 let total selected candidates from MP be 100

Jab = 16

Gwa = 36

Jab is $x\%$ of Gwa

$$Jab = \frac{x}{100} \times Gwa$$

$$\frac{Jab}{Gwa} \times 100 = x$$

$$\boxed{\frac{16}{36} \times 100 = x}$$

Data Interpretation

Q2. Study the following pie chart carefully and answer the questions given beside.

The following pie – chart shows the percentage distribution of candidates who were selected in RBI exam from six different districts of MP. Total selected candidates from MP = 54000

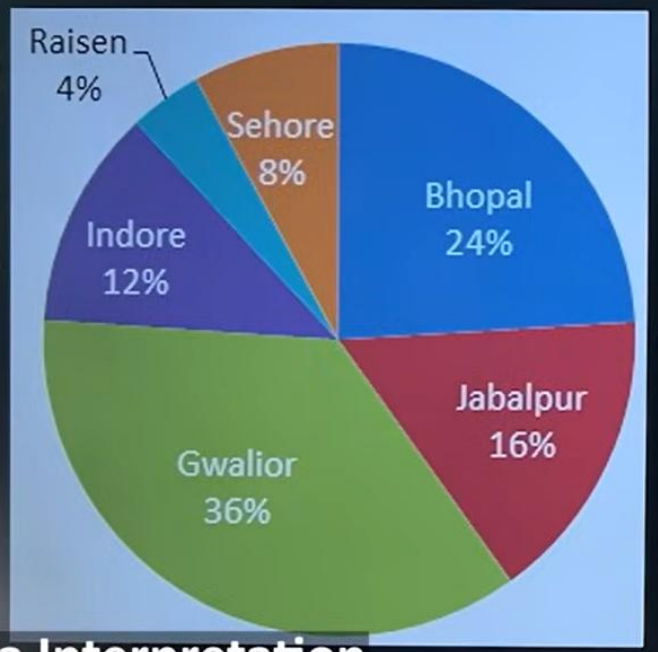

36% of 54000 = _____

24% of 54000 = _____

Data Interpretation

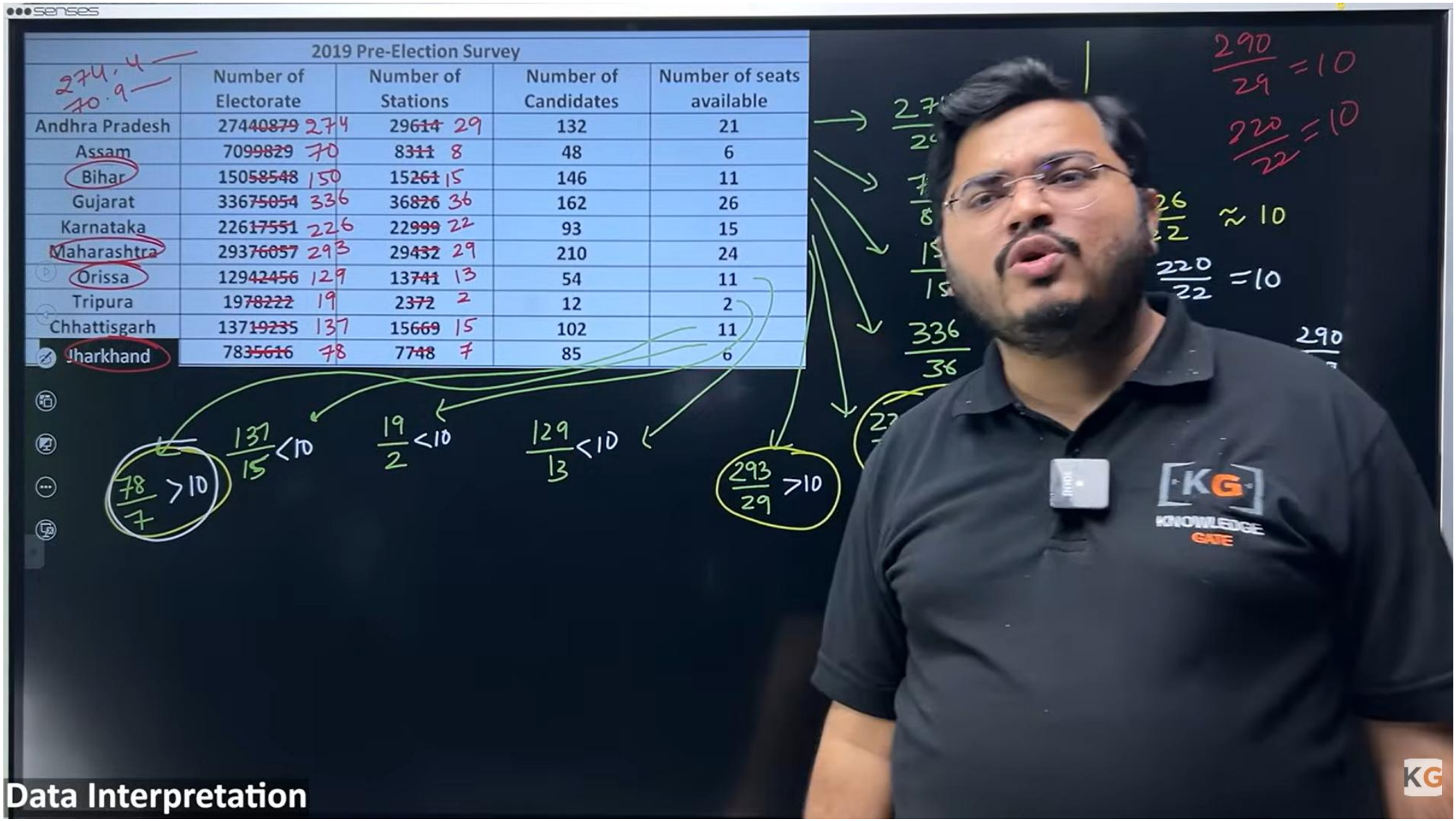
2019 Pre-Election Survey
Number of Electorate
Number of Stations
Number of Candidates
Number of seats available
Andhra Pradesh 27440879 29614 132 21
Assam 7099829 8311 48 6
Bihar 15058548 15261 146 11
Gujarat 33675054 36826 162 26
Karnataka 22617551 22999 93 15
Maharashtra 29376057 29432 210 24
Orissa 12942456 13741 13 54 11
Tripura 1978222 2372 12 2
Chhattisgarh 13719235 15669 102 11
Jharkhand 7835616 7748 85 6
274.4
70.9
274 29 150 15 336 36 226 22 293 29 129 13 137 15 19 2 78 7
78/7 > 10
137/15 < 10
19/2 < 10
129/13 < 10
293/29 > 10
290/29 = 10
220/22 = 10
≈ 10
KG
KNOWLEDGE GATE
Data Interpretation

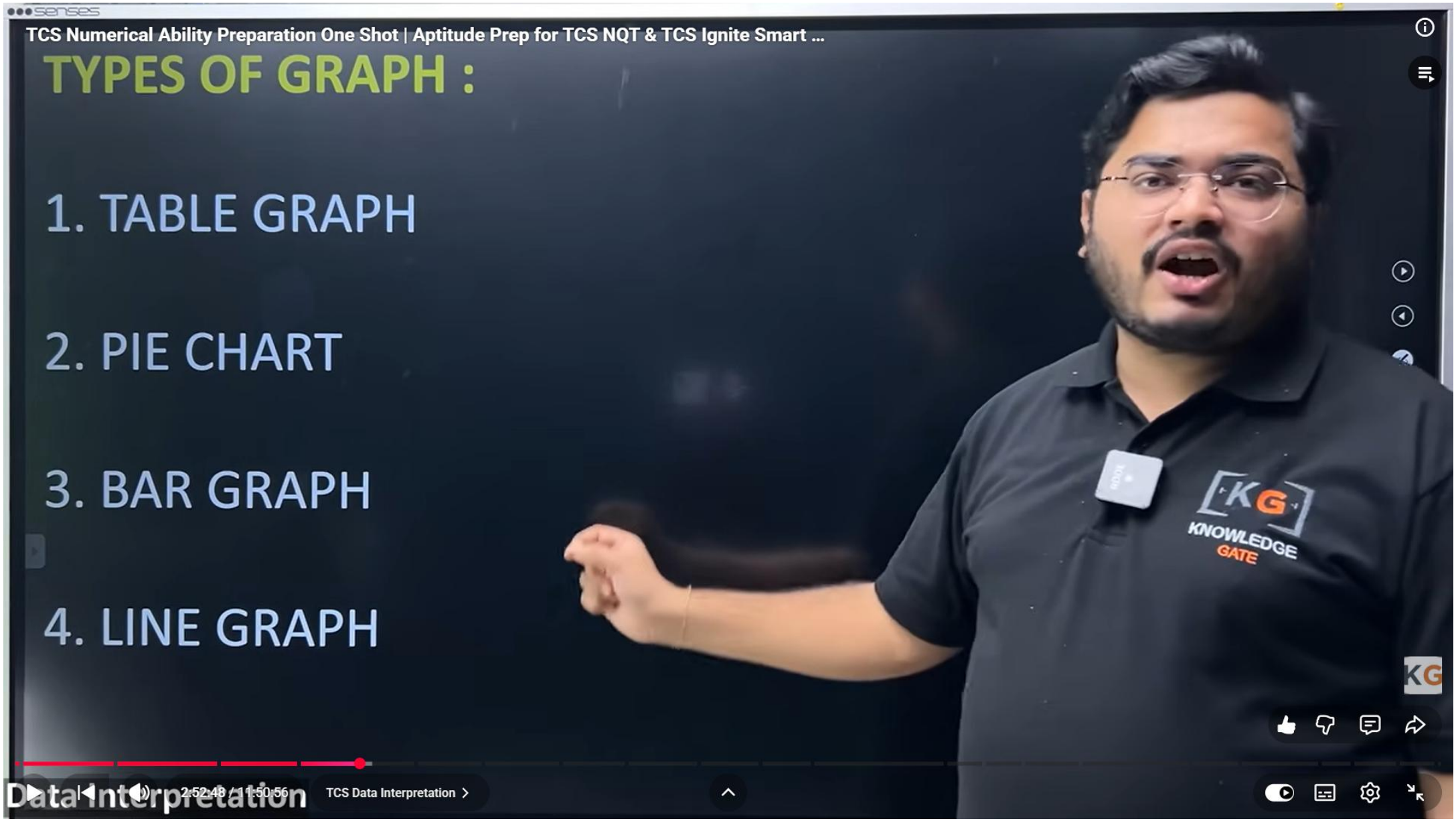
TCS Numerical Ability Preparation One Shot | Aptitude Prep for TCS NQT & TCS Ignite Smart ...
TYPES OF GRAPH :
1. TABLE GRAPH
2. PIE CHART
3. BAR GRAPH
4. LINE GRAPH
KNOWLEDGE GATE
2:52:48 / 11:50:56
TCS Data Interpretation

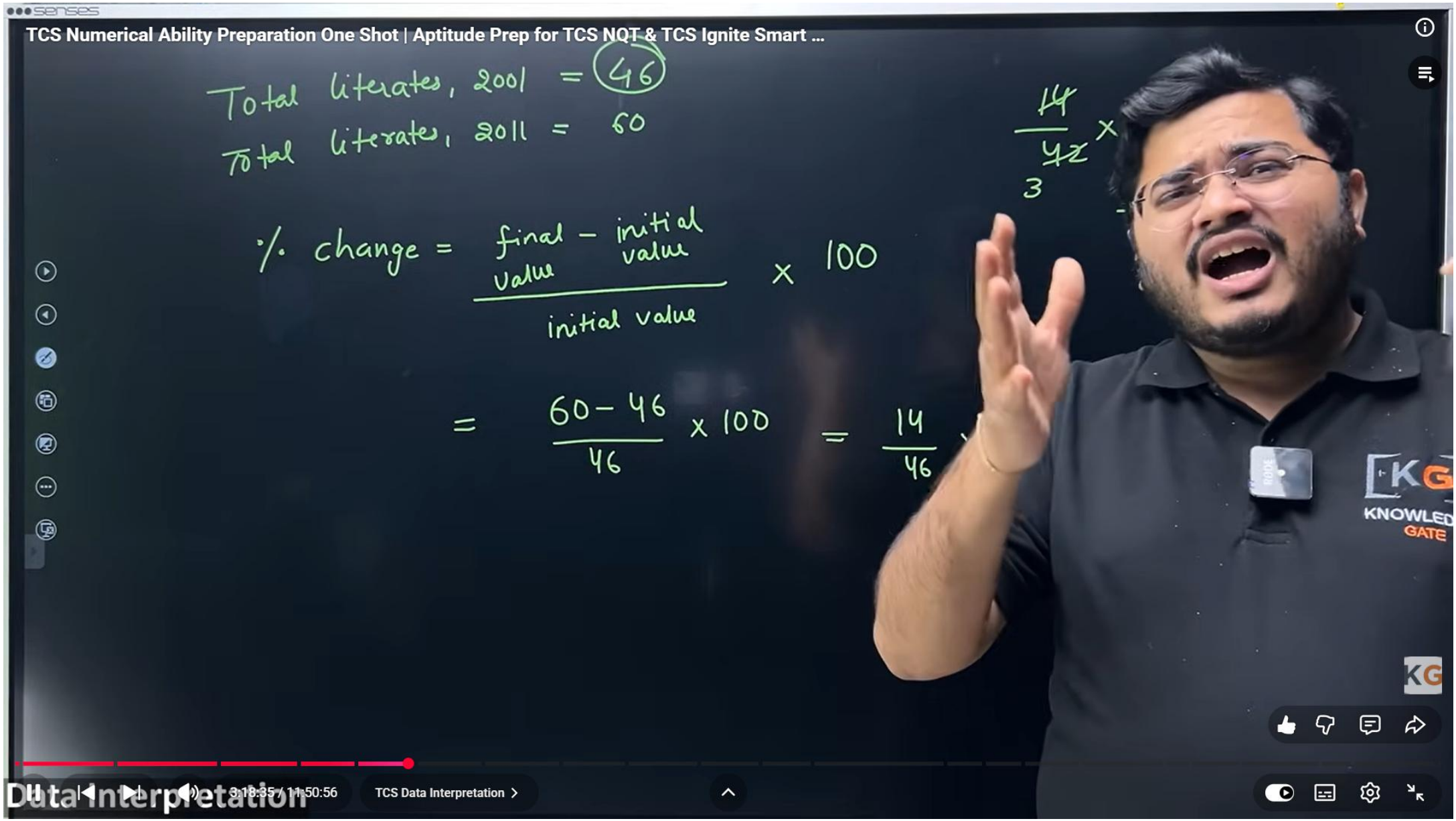
TCS Numerical Ability Preparation One Shot | Aptitude Prep for TCS NQT & TCS Ignite Smart ...
Total literates, 2001 = 46
Total literates, 2011 = 60
% change = (final value − initial value) / initial value × 100
= (60 − 46) / 46 × 100 = 14 / 46
KNOWLEDGE GATE
Data Interpretation
3:18:35 / 11:50:56
TCS Data Interpretation

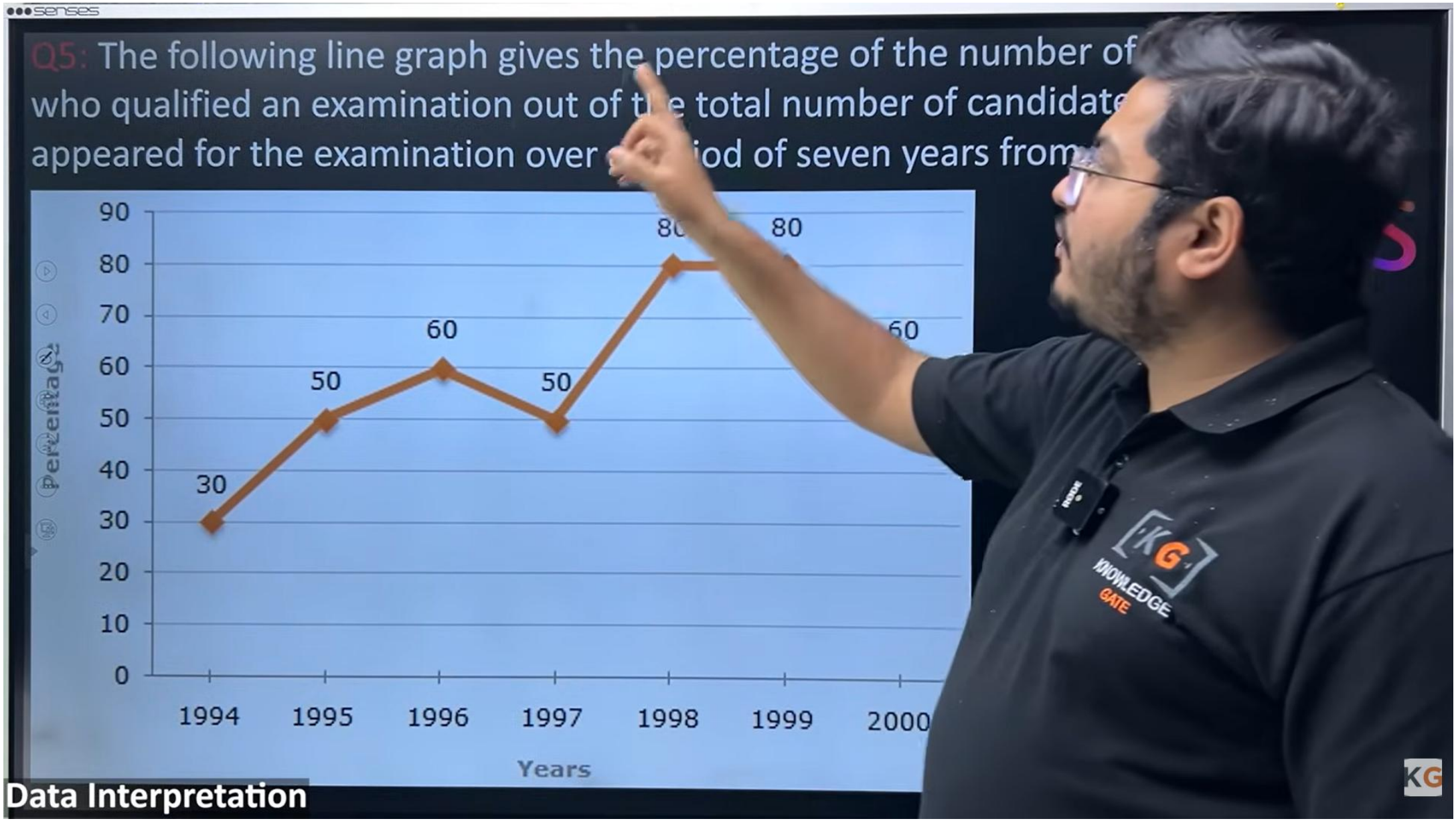
Q5: The following line graph gives the percentage of the number of
who qualified an examination out of the total number of candidate
appeared for the examination over period of seven years from
90
80
70
60
50
40
30
20
10
0
Percentage
30
50
60
50
80
80
60
1994
1995
1996
1997
1998
1999
2000
Years
KNOWLEDGE
GATE
Data Interpretation

The difference between the percentage of candidates qualified to appeared was maximum in which of the following pairs of years?

A. 1994 and 1995
B. 1997 and 1998
C. 1998 and 1999
D. 1999 and 2000

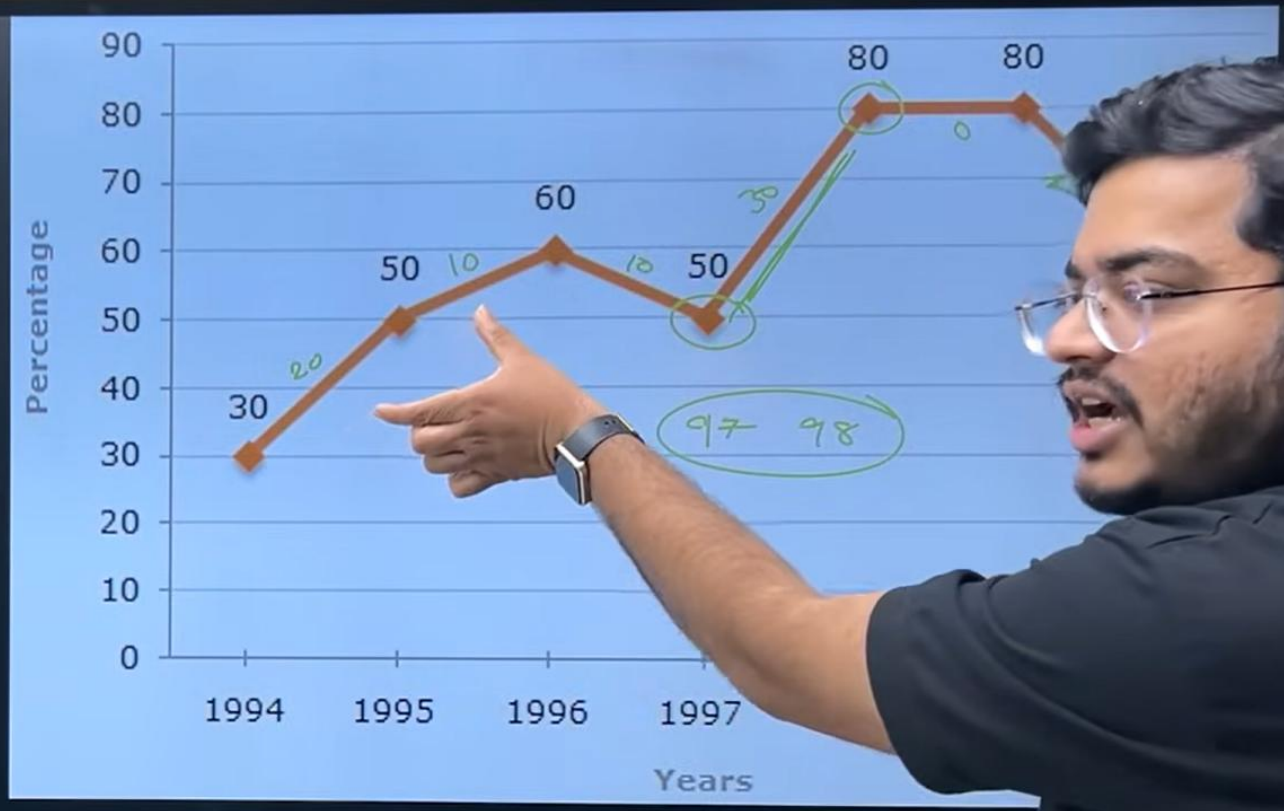

Data Interpretation